Name: _____

WORKSHEET

Sketching periodic functions – amplitude and period

| | | |

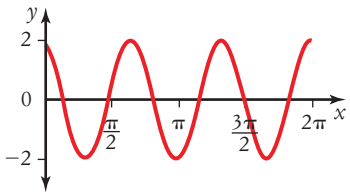
Solutions

A $\frac{\pi}{2}$

C $\frac{2\pi}{3}$

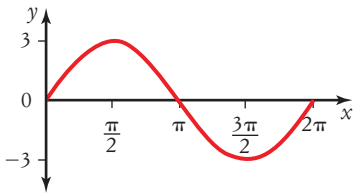
E 2

F

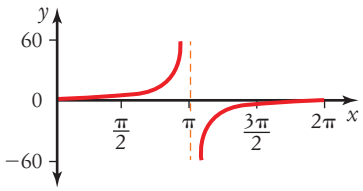


G 3

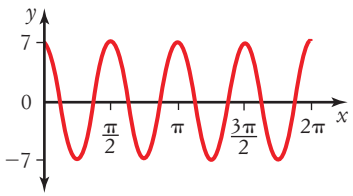
H



I



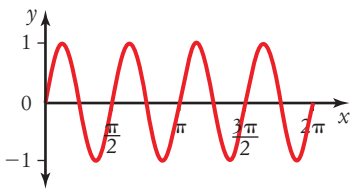
L



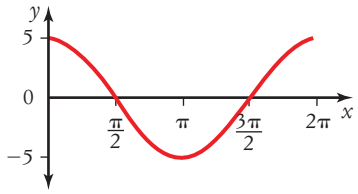
M 5

N 2π

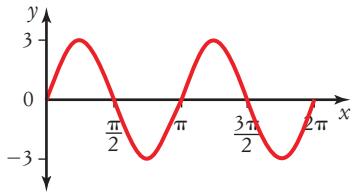
O



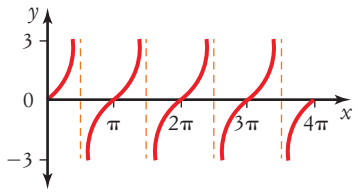
R



S



T



U 4

Y π